28.

Data Interpretation

Type - 5

1. This chart represent the household lost per month of a family if the family's income is Rs. 33,650 then the total expenditure incurred by the family on entertainment and food in a month.

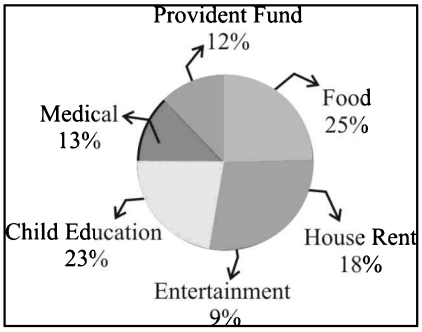

Family expenditure-
Provident fund
Food
House rent
Entertainment
Child education
Medical

(a) Rs. 11, 144 (b) Rs. 11, 441
(c) Rs. 11, 442 (d) Rs. 11, 414

RRB RPF SI – 16/01/2019 (Shift-II)

Ans : (b) Total expenditure on family entertainment and food.

$$= 33650 \times \frac{25+9}{100} = 33650 \times \frac{34}{100}$$

= Rs. 11,441

2. The percentage details of Ramu's monthly household expenses are as follows in four sections. If the earns Rs. 55000/month So, how much is the EMI he pays each month.



(a) Rs. 25300 (b) Rs. 24000
(c) Rs. 26300 (d) Rs. 25000

RRB RPF SI – 11/01/2019 (Shift-III)

Ans : (a) Payment of EMI every month

$$= \frac{46}{100} \times 55000 = 46 \times 550 = \text{Rs. } 25300$$

3. The given pie graph shows the total sales of various mobile companies for the year 2017.

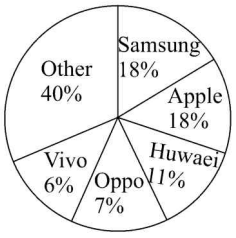

If the total sales in the year 2017 was 5000 crores then the sales in crore made by Vivo company was.

(a) 300 (b) 250
(c) 350 (d) 2000

RRB RPF Constable – 17/01/2019 (Shift-I)

Ans : (a)

$$\text{Sales by Vivo Company} = \frac{6}{100} \times 5000$$

$$= 300 \text{ Crore}$$

Note : (4-6) The pie chart below displays the instrument played by the student of a musical class. Read the following graph and answer the following questions.

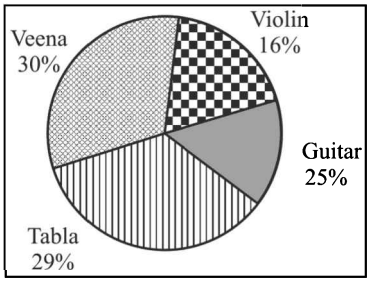

4. The sector code related to violin is.....

(a) 16.8° (b) 16°
(c) 57.6° (d) 48°

RRB RPF Constable – 22/01/2019 (Shift-I)

Ans. (c) : Total angles = 360°
Percentage of violin = 16%

$$\text{angles of violin} = \frac{360 \times 16}{100} = 57.6°$$

5. If there are 300 students in total, then what is the difference between tabla player and veena players.

(a) 30 (b) 90
(c) 3 (d) 9

RRB RPF Constable – 22/01/2019 (Shift-I)

Ans. (c) : Total numbers of students = 300

number of students playing tabla $= \frac{300 \times 29}{100} = 87$

number of students playing veena $= \frac{300 \times 30}{100} = 90$

intended difference = 90 – 87 = 3

6. What is the ratio of student who play guitar to violinists?

(a) 5:4 (b) 5:6
(c) 25:16 (d) 8:15

RRB RPF Constable – 22/01/2019 (Shift-I)

Ans : (c) Let total students are 100
then the guitarist = 25
Violinist = 16
intended ratio = 25:16

7. The following pie chart Q3 2015 shows different expenditure of company XYZ.

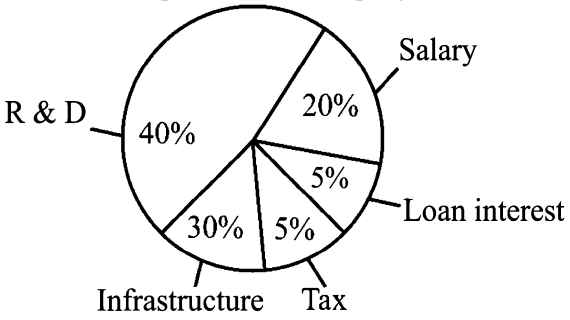

If company XYZ has spend Rs. 100 lakh crore on various department then how much will it cost in R&D (lakh crore)

(a) 30 (b) 20
(c) 10 (d) 40

RRB Group-D – 04/10/2018 (Shift-I)

Ans. (d) Out of the total expenditure (Rs. 100 Lakh crore) for XYZ, R & D expenditure $= 100 \times \frac{40}{100}$

= Rs. 40 (Lakh crore)

8. Following chart gives information about mobile manufacturer companies in India.

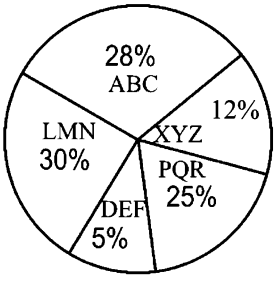

If the total number of mobile phones manufactured by the companies is 12,40,000 then how many mobiles were manufactured by the company XYZ.

(a) 1,48,800 (b) 7,200
(c) 28,800 (d) 57,600

RRB Group-D – 08/10/2018 (Shift-III)

Ans : (a)

Percentage of mobile phones manufactured by XYZ = 12%

$= 12,40,000 \times \frac{12}{100} = 1,48,800$

So number of mobile phone manufactured by XYZ company is 1,48,800

9. The following pie diagram shows information on the sale of sport by the company XYZ. Revenue during the year 2016 was $36,82,000

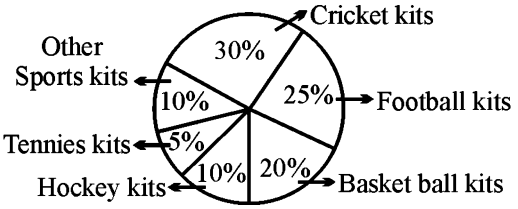

How much revenue was received by company XYZ through the sale (in $) of cricket kit in 2016

(a) 11,04,600 (b) 2,76,150
(c) 5,52,300 (d) 1,38,075

RRB Group-D – 23/10/2018 (Shift-I)

Ans. (a) : According to the question-

Revenue received during 2016 = $36,82000

sale of cricket kit = 30%

revenue from the sale of cricket kit

$= \frac{36,82,000 \times 30}{100} = \$1104600$

10. The data given below shows information about the mobile phone manufacturing companies in India. If the total mobile phones manufactured are 12,40,000

Total number of mobile phones manufactured by company PQR?

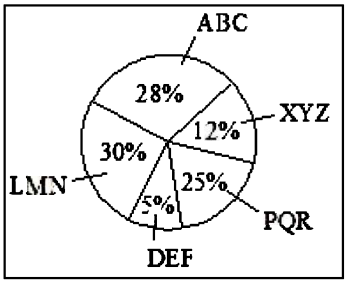

(a) 12,40,000 (b) 3,10,000
(c) 6,20,000 (d) 30,1000

RRB Paramedical Exam – 20/07/2018 (Shift-II)

Ans : (b) Total number of mobile phone manufactured = 12,40,000

So number of mobile phones manufactured by PQR company

$$=12,40,000\times\frac{25}{100}=3,10,000$$

11. This pie chart shows sales information of toy maker XYZ during the financial year 2017-18.

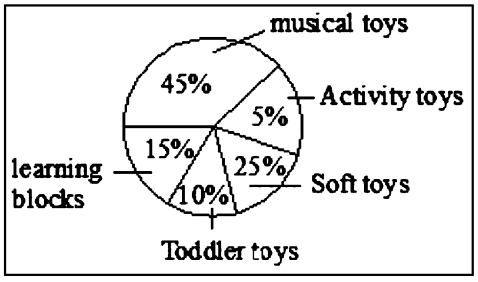

The revenue for sale of toys was Rs. 38,72, 000/–What kind of toys earned the best revenue for the company.

(a) Tolder toy (b) Musical toy
(c) Soft toy (d) Learning toy

RRB Group-D – 03/10/2018 (Shift-I)

Ans : (b)

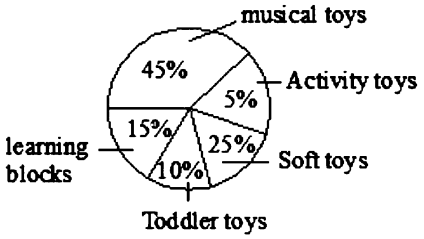

Total revenue = Rs. 3872000

$$\text{Maximum revenue}=\frac{3872000\times45}{100}=\text{Rs.}1742400$$

So revenue of musical toy was maximum.

12. The given pie chart shows the information on different types of cloth production in 2015 by company XYZ.

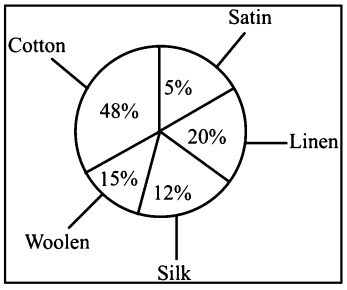

If the total production of clothes in 2015 is 150000 tonnes, then how many clothes in tonnes were produced in 2015.

(a) 7500 (b) 60,000
(c) 15000 (d) 30,000

RRB Group-D – 08/10/2018 (Shift-II)

Ans : (a) Total production of garments made by company XYZ in the year 2015 = 1,50,000 tonnes

total production of the satin by XYZ company in the year 2015 $=\frac{1,50,000\times5}{100}=7500$

Hence total production of satin by XYZ company in the year 2015 = 7500 tonnes

13.

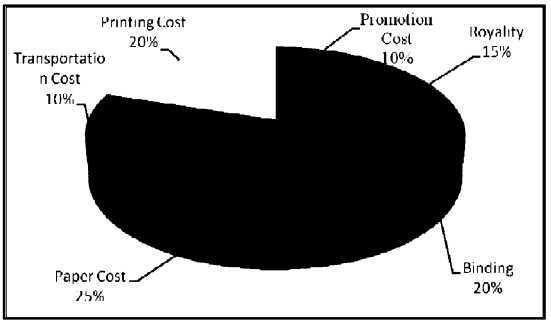

The pie graph represents the expenditure of a publishing house in Karnataka. If the total expenditure is Rs. 50,000, then the binding cost is.

(a) 12,500 (b) 10,000
(c) 7,500 (d) 5,000

RRB Group-D – 31/10/2018 (Shift-II)

Ans : (b) – Total expense = Rs. 50,000

binding cost = ?

$$50,000\times\frac{20}{100}$$

binding cost = $\boxed{\text{Rs.}10,000}$

14.

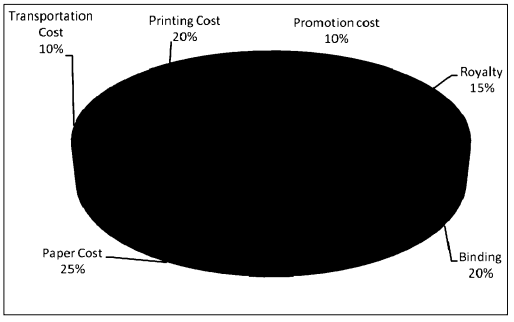

Pie graph shows the expenses of a publishing agency of Karnataka. If the total expenditure is Rs. 50,000, then the total expenditure on transport is.

(a) Rs. 5000 (b) Rs. 7000
(c) Rs. 10000 (d) Rs. 2500

RRB Group-D – 24/10/2018 (Shift-I)

Ans : (a)
Total expense 50000 rupees of publishing agency
100% = 50000
1% = 500
transportation charges = 10%
= 10 × 500
= Rs. 5000

Note : (15-17) pie chart shows favorite stars of a family people.
(Bollywood stars SRK, SK, AK, HR and VD)

Study the pie chart carefully and answer the questions based on it.

15. The ratio of those who like SK to these who like SRK is
(a) 6/5 (b) 5/6
(c) 1/2 (d) 2/1

RRB NTPC 11.04.2016 Shift : 2

Ans. (b) : SRK = 25 %
SK = 30 %
SRK : SK = 25 : 30
= 5:6

16. Which is the sector angle of HR.
(a) 36^0 (b) 72^0
(c) 54^0 (d) 108^0

RRB NTPC 11.04.2016 Shift : 2

Ans. (b) : Percentage of HR = 20%
total angles = 360^0
Homologous area angles of HR = $360 \times \frac{20}{100} = 72^0$

17. If there are 40 people in the family, the difference between these who like AK and these who like VD
(a) 2 (b) 3
(c) 4 (d) 6

RRB NTPC 11.04.2016 Shift : 2

Ans. (a) : Number of family members = 40
number of people who like AK $= 40 \times \frac{15}{100}$
= 6
number of people who like VD $= 40 \times \frac{10}{100}$
= 4
intended difference = 6 − 4
= 2

18. In a school, 1200 students were asked about their arrival vehicles and information received is indicated by the following pie chart, then based on the information given, find out how many students come to school by car.

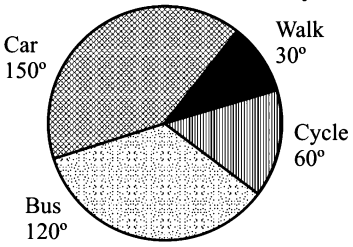

(a) 1000 (b) 900
(c) 500 (d) 750

RRB NTPC 28.03.2016 Shift : 2

Ans. (c) : Total students = 1200
Angle made by that students who comes by car = 150°
number of students coming by car $= 1200 \times \frac{150^0}{360^0}$
= 500

Note (19-21): The following pie chart shows the 5 states P, Q, R, S and T forest area. Consider the chart and answer the question based on it.



19. What would be the area of the state Q if the total area is 61700 sq. km.
(a) 11686 sq. km (b) 12,340 sq. km
(c) 13,574 sq. km (d) 19,744 sq. km

RRB NTPC 04.04.2016 Shift : 2

Ans. (c) : The area of state Q
$= 61700 \times \frac{22}{100} = 617 \times 22 = 13574$ sq. km

20. Sector angle of state P is.....
(a) 50.4^0 (b) 64.8^0
(c) 43.2^0 (d) 79.2^0

RRB NTPC 04.04.2016 Shift : 2

Ans. (a) : Sum of sector angles of all states = 360^0
Sector angles of state P $= \frac{360 \times 14}{100}$ $\left[\because 100\% = 360^0 \quad 14\% = \frac{360 \times 14}{100}\right]$
$= 50.4^0$

21. The ratio of forest area of state R to the combined forest area of states T and S is.
(a) 17/16 (b) 17/15
(c) 11/15 (d) 11/16

RRB NTPC 04.04.2016 Shift : 2

Ans. (b) :
Intended ratio = (forest area of state R) : (forest area of state T and S)

$= 34\% : (18+12)\%$

$= 34 : 30$

$= 17 : 15$

$= \frac{17}{15}$

22.

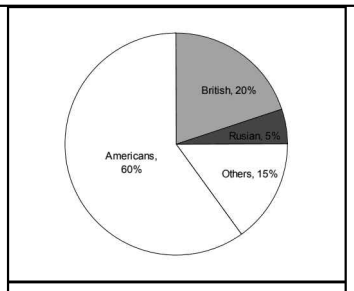

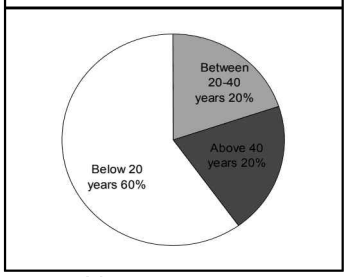

Below 20 years
Between 20-40 years
Above 40 years
The given figures depict the country-wise and age-wise distribution of the people who visit China for business setup.
If in a given year, 500,000 people visited China, then the ratio of the number of Americans with the age group between 20 and 40 years to the Russians with the age group below 20 years who visited China is:

(a) 4 : 1 (b) 1 : 2
(c) 2 : 1 (d) 1 : 4

RRB ALP & Tec. (31-08-18 Shift-III)

Ans : (a) Number of Americans $= 500000 \times \frac{60}{100}$
$= 300000$

American's number between 20 and 40 years old

$= 300000 \times \frac{20}{100} = 60000$

and

Russian numbers below 20 years of age

$= \left(500000 \times \frac{5}{100}\right) \times \frac{60}{100} = 15000$

So

$\frac{\text{American between 20 and 40 years old}}{\text{Russian below 20 years of age}} = \frac{60000}{15000}$

$= \frac{4}{1} = 4:1$

23. The given graph shows the distribution of minerals in the human body. Based on the given data, what is the ratio of calcium to sodium found in the human body ?

Distribution of various Minerals in Human Body

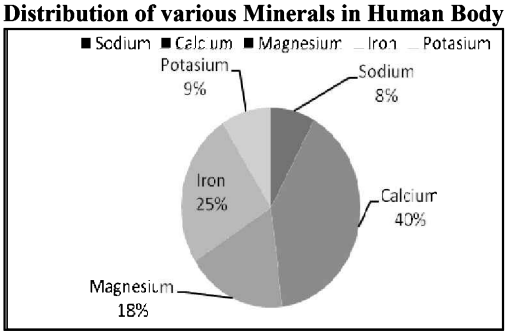

(a) 3 : 1 (b) 4 : 1
(c) 2 : 1 (d) 5 : 1

RRB ALP & Tec. (20-08-18 Shift-II)

Ans : (d) Calcium = 40%
Sodium = 8%
So Calcium : Sodium = 40 : 8
= 5 : 1

24. In the following pie chart, annual production of some of the yield (in tonnes) is given.
If the total production is 9000 tonnes, then the yield of rice is _____ tonnes.

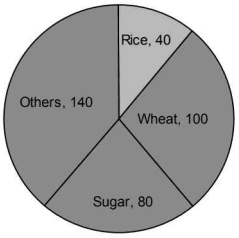

(a) 3000 (b) 1000
(c) 2000 (d) 1500

RRB ALP & Tec. (09-08-18 Shift-III)

Ans : (b) Rice production $= 9000 \times \frac{40°}{360°} = 1000$ tonnes

Type - 2

25. What is the total percentage (1 decimal point) of illiterate people in all 4 cities.....

City	Population	Literate	Illiterate	% of literate
A	200	150	50	–
B	300	200	100	66.6
C	150	50	100	–
D	120	–	90	25

(a) 44.1 (b) 44.3
(c) 44.5 (d) 44.2

RRB RPF Constable – 25/01/2019 (Shift-I)

Ans. (d) : Total population of four cities are = 200 + 300 + 150 + 120 = 770

Percentage of total illiterate people in the four cities

$$= (50 + 100 + 100 + 90)\ \frac{100}{770} = \frac{340 \times 100}{770}$$

$\boxed{x = 44.2\%}$ Almost/Approximate

26. If state N has a male population below the poverty line 2.6 million and for the state Q total population below the poverty line is 6 million. Then the total ratio of states N and Q is.

(a) 4.33 : 9 (b) 2.33 : 10
(c) 3 : 5.5 (d) 1 : 1

RRB RPF SI – 05/01/2019 (Shift-III)

Ans. (a) : Male population of state N below the poverty line = 2.6 million

$\therefore$ female population $= \frac{2}{3} \times 2.6 = \frac{5.2}{3}$

= 1.73 million

$\therefore$ total population below poverty line = 2.6 + 1.73

= 4.33 million

total population of N state $= \frac{4.33 \times 100}{30}$

$= \frac{433}{30}$ million

$\because$ poverty line of Q state = 6 million

total population of Q state $= \frac{6}{20} \times 100 = 30$ million

$\therefore$ total population ratio of state N and Q $= \frac{433}{30} : 30$

= 433 : 900

= 4.33 : 9

Note (27-29): The bracket below shows the percentage details of the total expenditure of the company Zeta interactive service under various heads during 2003.

Basic infrastructure	**20**
Transportation	**12.5**
Advertisement	**15**
Tax	**10**
R & D	**5**
Salary	**20**
Interest on debt	**17.5**

27. What is the ratio of Zeta interactive services of total expenditure on infrastructure and transportation against total cost of interest on tax and loans.

(a) 5:4 (b) 8:7
(c) 9:7 (d) 11:13

RRB RPF Constable – 20/01/2019 (Shift-II)

Ans. (d) : Zeta interactive services total tax expense and interest on loans = 10 + 17.5 = 27.5%

total expenditure on infrastructure and transportation = 20 + 12.5 = 32.5%

intended ratio = 27.5 : 32.5

= 11 : 13

28. If the amount of interest on loans is Rs. 2.45 crores, then what is the total amount spend on advertising, taxes and modification and development of won interactive services?

(a) 7 crore (b) 5.4 crore
(c) 4.2 crore (d) 3 crore

RRB NTPC 29.04.2016 Shift : 2

Ans. (c) : Let the above mentioned money to the total amount spent

and total expenditure on advertisement, tax and amendment and development

=(15+10+5)% = 30%

from the question-

$$\frac{17.5\%}{24500000} = \frac{30\%}{y}$$

$$\frac{24500000 \times 30}{17.5} = y$$

y = 4.2 crore

29. If the expenditure of Zeta interactive service is 2.10 crore on the advertisement, then what is the difference between taxes and households?

(a) 1.25 crore (b) 95 lakhs
(c) 65 lakhs (d) 35 lakhs

RRB NTPC 29.04.2016 Shift : 2

Ans. (d) :

Difference between transport and taxes% = 12.5–10 = 2.5

Advertising expenditure = 15%

$$\frac{15\%}{21000000} = \frac{2.5\%}{x}$$

$$\Rightarrow \frac{21000000 \times 2.5}{15} = x$$

$\Rightarrow$ x = 35 Lakh

30. CO_2 emissions in 3 years in the following municipality has given.

Year	CO_2 emission from house
2015	100
2016	110
2017	150

What is the percentage increase in CO_2 emission between 2016 and 2017?

(a) 63.63% (b) 36.36%
(c) 36.45% (d) 26.36%

RRB Group-D – 17/09/2018 (Shift-II)

Ans : (b) Increase in percentage of CO_2 emission between 2016 and 2017

$$= \frac{150 - 110}{110} \times 100 = \frac{40}{110} \times 100 = 36.36\%$$

31. The following table gives the details of 3 years of sales of the company.

	Sales in lakh (Area-1)	Sales in lakh (Area-2)
2014	7	3
2015	15	5
2016	18	7

What was the percentage difference of sales in the year 2014 and 2016?

(a) 1.5% increment (b) 1.5% increment
(c) 150% increment (d) 150% increment

RRB Group-D – 12/11/2018 (Shift-III)

Ans : (c) Difference % $= \frac{(18+7)-(7+3)}{(7+3)} \times 100$

$= \frac{25-10}{10} \times 100 = \frac{15}{10} \times 100$

= increase 150%

32. Uma is organizing a terrace party. She determines the total estimated expenditure according to the table given in the following five plants.

Estimate expenditure	% Expenditure
1	30
2	20
3	10
4	25
5	15

If she spends 850 on item 3, then what is the total expenditere on item 2 and 5.

(a) Rs. 1795 (b) Rs. 2975
(c) Rs. 1275 (d) Rs. 1175

RRB Group-D – 19/09/2018 (Shift-II)

Ans. (b) : The total amount spent by Uma at item 3 is Rs. 850, which is 10% of the total amount

$\therefore$ total amount = $\frac{850 \times 100}{10}$ = Rs. 8500

$\therefore$ spent amount on item- 2 = $\frac{8500 \times 20}{100}$ = Rs. 1700

$\therefore$ spent amount on item- 5 = $\frac{8500 \times 15}{100}$ = Rs. 1275

total expenditure incurred by Uma on item-2 and item - 5 = 1700+1275 = Rs. 2975

33. Expense on various items of a company are shown below (in lakhs).

Year	Salary	Bonus	Tax	Interest on debt
year 1	200	10	70	20
year 2	200	10	70	22
year 3	450	10	120	20

What is the percentage of the total expenditure of year 12 of the total expenditure of year 3.

(a) 100% (b) 5%
(c) 0.5% (d) 50%

RRB Group-D – 19/09/2018 (Shift-II)

Ans. (d) : From the given table-

total expenditure of one year = 200+10+70+20 = 300 lakh rupees

total expenditure of three year = 450+10+120+20= 600 lakh rupees

$\therefore$ intended percentage = $\frac{300}{600} \times 100 = 50\%$

34. For 3 years of a special brand of sugar in three states sales data are given in the table below. Data are in lakh rupees.

	State 1	State 2	State 3
years 1	15	12	9
years 2	12	14	8
years 3	14	15	13

What is the percentage difference in sales for 1 year to 3 years.

(a) 18% (b) 16.67%
(c) 19.67% (d) 15.67%

RRB Group-D – 26/09/2018 (Shift-I)

Ans : (b) Total sales of one year = 15 + 12 + 9 = 36
total sales of three year = 14 + 15 + 13 = 42
difference = 6

intended % $= \frac{6}{36} \times 100 = 16.67\%$

35. The operating cost of a company is given below.

	2016	2017
Debt interest	25%	25%
Salary	50%	55%
Tax	25%	20%

Total money spent on operations in 2016 is 120 lakhs and total money spent in 2017 is 150 lakhs. How such was the salary higher in 2017 than in 2016 ?

(a) Rs. 20 lakhs (b) Rs. 10 lakhs
(c) Rs. 22.5 lakhs (d) Rs. 5 lakhs

RRB Group-D – 28/09/2018 (Shift-II)

Ans. (c) : Expenditure on salaries in 2016 = $120 \times \frac{50}{100}$ = 60 Lakhs rupees

expenditure on salaries in 2017 = $150 \times \frac{55}{100}$ = 82.5 Lakh rupees

increase in salary in 2017 compared to 2016 = 82.5-60 = 22.5 Lakh rupees

36. Based on the following table, in which months number of production of screues is greater than the overage number of production of screues in each months.

Months	The number of produced screws (In thousand)
January	200
February	300
March	250
April	250
May	230
June	270

(a) only June (b) February and June
(c) January and February (d) May and June

RRB Group-D – 05/10/2018 (Shift-II)

Ans. (b) : Average number of screws

$$= \frac{200+300+250+250+230+270}{6}$$

$$= \frac{1500}{6} = 250$$

Hence the months of production of screws above the average number of screw are February and June

37. The following table gives the average price per *quarter of* vegetables in 2 years. In which quarter the price difference was maximum?

	Price kg (Rs.) year 1	Price kg (Rs.) year 2
Qua-1	36	40
Qua-2	80	80
Qua-3	65	40
Qua-4	43	40

(a) quarter 4 (b) quarter 1
(c) quarter 2 (d) quarter 3

RRB Group-D – 11/10/2018 (Shift-II)

Ans : (d) Difference in quarter 1 = 40 – 36 = 4
Difference in quarter 2 = 80 – 80 = 0
Difference in quarter 3 = 65 – 40 = 25
Difference in quarter 4 = 43–40 = 3
The difference of quarter 3 is the highest among the four quarters

38. According to the following table. Over a period of 2 years. for how many months the prices of vegetables remain the same ?

Month	Price per kg (Rs.) year-1	Price per kg (Rs.) year-2
January	40	35
February	30	50
March	40	35
April	80	80
May	80	80
June	80	80
July	80	80
August	50	60
September	50	40
October	50	50
November	40	35
December	40	35

(a) 6 (b) 5
(c) 3 (d) 2

RRB Group-D – 24/09/2018 (Shift-I)

Ans : (b) In a period of 2 years, the months in which the prices of vegetables were same-
April, May, June, July, October
So the price of vegetables the same for five months

39. What is his average score in a game based on the following table in a football team scoring *the following* goals in six matches?

Play	Number of goals
Game 1	2
Game 2	1
Game 3	0
Game 4	4
Game 5	3
Game 6	2

(a) 4 (b) 3
(c) 1 (d) 2

RRB Group-D – 22/10/2018 (Shift-II)

Ans : (d) Number of games = 6
total number of goals = 2 + 1 + 0 + 4 + 3 + 2
= 12
average score in game = 12/6
= 2

40. The monthly fees charged by a sports complex for various disciplines are as follows: Rs. 500 for gym, Rs. 1,500 for swimming pool and Rs. 2000 for tennis court. The list of consumers using these facilities is given below. How much does the gym earn from users who use it.

Facilities	Number of consumers
Gym	300
Swimming pool	200
Tennis court	100

(a) Rs. 1,50,000 (b) Rs. 15,000
(c) Rs. 25,000 (d) Rs. 50,000

RRB Group-D – 18/09/2018 (Shift-III)

Ans. (a) : Number of gym consumers = 300
gym fee = Rs. 500
per month earnings from gym =300× 500 = Rs.1,50,000

Note (41-43): Read the information given below and answer the questions given below.

The information of the number of sitting, answering and selected candidates from Delhi in competitive examination between 1997 and 2001 is given below.

Year	Sitting in examination	Passed	Selected
1997	8000	850	94
1998	4800	500	48
1999	7500	640	82
2000	9500	850	90
2001	9000	800	70

41. In which year was the minimum percentage of selected candidates among the candidates.

(a) 1998 (b) 2000
(c) 2001 (d) 1999

RRB NTPC 28.04.2016 Shift : 2

Ans.(c) Percentage of selected candidates in the year 1997

$$= \frac{94 \times 100}{8000} = 1.175\%$$

Percentage of selected candidates in the year 1998

$$= \frac{48 \times 100}{4800}$$
$$= 1\%$$

Percentage of selected candidates in the year 1999

$$= \frac{82 \times 100}{7500}$$
$$= 1.093\%$$

Percentage of selected candidates in the year 2000

$$= \frac{90 \times 100}{9500}$$
$$= 0.947\%$$

Percentage of selected candidates in the year 2001

$$= \frac{70 \times 100}{9000}$$
$$= 0.7778\%$$

So percentage of selected candidates in the year 2001 is minimum.

42. In which year the ratio of the number of selected candidates to the number of passed candidates was maximum.

(a) 1998 (b) 2000
(c) 2001 (d) 1999

RRB NTPC 28.04.2016 Shift : 2

Ans. (d) : Ratio in 1998 years $= \frac{48}{500} = 0.096$

Ratio in 2000 years $= \frac{90}{850} = 0.1058$

Ratio in 2001 years $= \frac{70}{800} = 0.0875$

Ratio in 1999 years $= \frac{82}{640} = 0.128$

The ratio of the number of selected candidates to the number of passed candidates in 1999 is the maximum.

43. What is the average number of selected candidates in the given interval.

(a) 79 (b) 77
(c) 76 (d) 74

RRB NTPC 28.04.2016 Shift : 2

Ans. (b) : Average number of selected candidates

$$= \frac{94 + 48 + 82 + 90 + 70}{5}$$

$$= \frac{384}{5} = 76.8 \approx 77$$

Note (44-45): The following table shows the population details based on poverty line and gender in 5 states M, N, O, P and Q.

State	Population of below poverty line %	The ratio of male (M) and female (F)	
		Below poverty line	Above poverty line
		M : F	M : F
M	40	7 : 6	8 : 7
N	30	3 : 2	6 : 5
O	26	1 : 1	4 : 3
P	17	1 : 2	4 : 5
Q	20	2 : 3	3 : 4

44. If the men population of state O above the poverty line is 1.7 million. The what will be the total population of state O.

(a) 4.62 million (b) 11.44 million
(c) 5.63 million (d) 4.02 million

RRB NTPC 28.04.2016 Shift : 1

Ans. (d) : $\because$ Male population above million the state O poverty line = 1.7 millions

$\therefore$ female population $= \frac{3}{4} \times 1.7 = \frac{5.1}{4}$

= 1.275 million

total population above the poverty line = 1.7 + 1.275

= 2.975

population (%) above the state O poverty = 100 – 26

= 74 %

$\therefore$ total population of state O $= \frac{2.975 \times 100}{74}$

= 4.02 million

45. What will be the female population above the poverty line of state P if it is known that the total population of state P is 9 million.

(a) 4.32 million (b) 5.32 million
(c) 4.15 million (d) 6.32 million

RRB NTPC 28.04.2016 Shift : 1

Ans. (c) : $\because$ Total population of P states = 9 million

$\therefore$ population of state P above the poverty line = 9 million's 83%

$$= 9 \times \frac{83}{100} = \frac{747}{100} = 7.47 \text{ million}$$

$\because$ ratio of male to female in population of state P above the poverty line = 4:5

$\therefore$ female population above poverty line $= \frac{5}{4+5} \times 7.47$

$= \frac{5}{9} \times 7.47 = \frac{37.35}{9} = 4.15$ million

Note (46) : The following table shows the record of a football team's performance in 7 tournaments played for 4 years.

Record of played tournaments	Won matches	Loose matches	The no. of total played matches
I	5	3	8
II	4	4	8
III	5	2	7
IV	6	3	9
V	4	2	6
VI	3	3	6
VII	2	4	6

46. In what percentage of the matches played the team won.

(a) 58% (b) 80%
(c) 75% (d) 52%

RRB NTPC 19.01.2017 Shift : 3

Ans. (a) : Total matches played = 50
total matches won = 29
$\frac{29}{50} \times 100$
$\Rightarrow$ 58%

Note (47- 49): Study the following tables and answer the questions based on it

The following tables gives the company's investment for a few years as a per year.

year	Expense of details				
	Salary	Fuel and Transport	Bonus	Interest on dept	Taxes
1998	288	98	3.00	23.4	83
1999	342	112	2.52	32.5	108
2000	324	101	3.84	41.6	74
2001	336	133	3.68	36.4	88
2002	420	142	3.96	49.4	98

47. The company's total expenditure on goods during the year 2001 is.

(a) Rs. 590 lakhs (b) Rs. 598 lakhs
(c) Rs. 597 lakhs (d) Rs. 597.08 lakhs

RRB NTPC 11.04.2016 Shift : 1

Ans. (d) : Total expenditure of the company on goods during the year 2001 = 336 + 133 + 3.68 + 36.4 + 88
= Rs. 597.08 Lakh

48. What is the ratio between the total expenditure on tax for all the years and the total bonus for all the years in order.

(a) 9 : 40 (b) 25 : 13
(c) 451 : 17 (d) 1 : 25

RRB NTPC 11.04.2016 Shift : 1

Ans. (c) : Total expenditure on taxes for all years
= 83 + 108+74+88+98
= 451
total bonus for all years = 3 + 2.52 + 3.84 + 3.68+3.96
= 17.00
$\therefore$ Intended ratio = 451 : 17

49. What is the percentage of expenditure on salary in the year 2001 on fuel and transport forms.

(a) 34.54% (b) 39.58%
(c) 33.57% (d) 37.58%

RRB NTPC 11.04.2016 Shift : 1

Ans. (b) : In year 2001,
expense on fuel and transport = 133 Lakh
expense on salary = 336 Lakh
$\therefore$ intended percentage $= \frac{133}{336} \times 100$
= 39.58%

Note (50-52): The following table shows the number of MSD, VK, RD and SR fans in different areas of the city. Consider the following information and answer the following question based on it.

	Area 1	Area 2	Area 3	Area 4
VK	2500	1700	2300	5000
MSD	3000	3000	4000	3100
RD	1500	3500	4500	5200
SR	1500	4000	3500	2500

50. What is the difference between total number of fans of SR and MSD?

(a) 1500 (b) 1600
(c) 3000 (d) 3200

RRB NTPC 19.04.2016 Shift : 2

Ans. (b) : Total number of SR fan's-
= 1500 + 4000 + 3500 + 2500 = 11500
total number of MSD fan's
= 3000 + 3000 + 4000 + 3100 = 13100
difference = 13100 – 11500
= 1600

51. Whose fans are largest?

(a) VK (b) MSD
(c) RD (d) SR

RRB NTPC 19.04.2016 Shift : 2

Ans. (c) : Number of VK fan's
= 2500 +1700+2300+5000 = 11500
number of MSD fan's
= 3000 + 3000 + 4000 + 3100 = 13100
number of RD fan's
= 1500 + 3500 + 4500 + 5200 = 14700
number of SR fan's
= 1500 + 4000 + 3500 + 2500 = 11500
So it is clear that maximum number of fan's (14700) is of RD

52. What is difference between number of fans in area 2 as compared to area 3.

(a) Area 2 to 2200 fans more
(b) Area 2 to 2100 fans less
(c) Area 2 to 2100 fans more
(d) Area 2 to 2200 fans less

RRB NTPC 19.04.2016 Shift : 2

Ans. (b) : Fan's number of area- 2
= 1700 + 3000 + 3500 + 4000 = 12200
fan's number of area-3 = 2300 + 4000 + 4500 + 3500
= 14300
difference = 14300–12200 = 2100
It is clear that in area-2 is minimum 2100 fan's as compare to area-3

Instruction (53-55): Study the given data and answer the question that follow (In lakh hectares)

State	2011	2012	2013
Punjab	220	256	264
Harayana	120	108	151
Uttar Pradesh	100	143	128
Madhya Pradesh	40	85	90
Maharastra	80	150	175
Rajasthan	30	26	24

53. What was the percentage of increase in agriculture land in Punjab in 2013 compared to year 2011?

(a) 20 (b) 16.36
(c) 25.8 (d) 22.33

RRB NTPC 18.01.2017 Shift : 2

Ans. (a) : % increament $= \frac{(264-220)\times 100}{220}$

$\Rightarrow \frac{44\times 100}{220} = 20\%$

54. What is the difference in the total agriculture area of lakh hectares of Maharastra and M.P. on a combined bares in all 3 years.

(a) 135 (lakh hectare) (b) 34 (lakh hectare)
(c) 190 (lakh hectare) (d) 174 (lakh hectare)

RRB NTPC 18.01.2017 Shift : 2

Ans. (c)
Total agriculture area in difference of Maharashtra and Madhya Pradesh
⇒ (80+150+175) – (40+85+90)
⇒ 405–215 = 190 (Lakh hectare)

55. What was the maximum agriculture area in U.P. as compared to Rajasthan in the year 2012.

(a) 35 (lakh hectare) (b) 117 (lakh hectare)
(c) 113 (lakh hectare) (d) 58 (lakh hectare)

RRB NTPC 18.01.2017 Shift : 2

Ans : (b) Agriculture area of 2012 Uttar Pradesh agriculture of 2012 Rajasthan
143–26 = 117 (Lakh hectare)

Instruction (56-58): Take of the following table and answer the question based on it.

The marks scored by the students in various subject in an examination are given below.

Student	Subject			
	Physics (In 120)	Chemistry (In 120)	Biology (In 120)	Mathematics (In 120)
Anil	95	53	61	70
Binu	105	84	42	80
Chirag	95	65	73	90
Dhawan	85	65	84	60
Alza	85	66	95	50
Farah	75	77	85	40
George	65	38	75	80

56. How many students have scored more than 60% in the exam.

(a) 7 (b) 6
(c) 5 (d) 4

RRB NTPC 04.04.2016 Shift : 3

Ans. (b) :

Anil's percentage marks $= \frac{95+53+61+70}{120+120+120+100}\times 100$

$= \frac{279}{460}\times 100 = 60.65\%$

similarly the percentage marks of Binu

$= \frac{105+84+42+80}{460}\times 100$

$= \frac{311}{460}\times 100 = 67.60\%$

Chirag's percentage marks $= \frac{95+65+73+90}{460}\times 100$

$= \frac{323}{460}\times 100 = 70.21\%$

Dhawan's percentage marks

$= \frac{85+65+84+60}{460}\times 100 = \frac{294}{460}\times 100 = 63.91\%$

Alza's percentage marks

$= \frac{85+66+95+50}{460}\times 100 = \frac{296}{460}\times 100 = 64.34\%$

Farah's average marks

$= \frac{75+77+85+40}{460}\times 100 = \frac{277}{460}\times 100 = 60.21\%$

George percentage marks

$= \frac{65+38+75+80}{460}\times 100 = \frac{258}{460}\times 100 = 56.08\%$

Hence the remaining 6 students except George have scored more than 60%

57. Who is first in class in terms of total percentage mark in the exam.

(a) Binu (b) Chirag
(c) Dhawan (d) Alja

RRB NTPC 04.04.2016 Shift : 3

Ans. (b) : The percentage of Chirag is the highest in the class (70.21%). See the explanation of the above question.

58. What is the average of more marks by Dhawan in all 4 subjects?

(a) 65.3 (b) 71.3
(c) 68.3 (d) 73.5

RRB NTPC 04.04.2016 Shift : 3

Ans. (d) : Dhawan's average score $= \frac{85+65+84+60}{4}$

$= \frac{294}{4} = 73.5$

59. The following table gives the details of the number of students in Class 10, section A and B, who had taken their midterm and final exams.

Result	Section A 10 'A'	Section B 10 'B'
Total number students who failed in both the exams	**28**	**23**
Total number of students who failed in the midterm but passed in the final exam	**14**	**12**
Total number of students who passed in the midterm but failed in the final exam	**6**	**17**
Total Number of students who passed in both the exams	**64**	**55**

Based on the above data, what percentage of class 10 A students were successful final exam.

(a) 69.64 (b) 69.70
(c) 69.69 (d) 69.54

RRB ALP & Tec. (31-08-18 Shift-I)

Ans : (a) Passed students number in last year exam = 64+14=78
total number of students = 14+28+6+64= 112
succeed students percentage of 10 'A' in last year

$= \frac{78}{112} \times 100$

$= 69.64$

60.

Stu / Sub	P	C	B	M
W	**70**	**90**	**50**	**85**
X	**55**	**80**	**95**	**60**
Y	**60**	**20**	**90**	**40**
Z	**90**	**80**	**40**	**65**

The given table represents the marks obtained by four students W, X, Y and Z in four subjects P, C, B and M, with the maximum marks in each subject being 100.

Based on the given data, the student who got the lowest percentage in P, C, M and B combined is:

(a) Y (b) Z
(c) X (d) W

RRB ALP & Tec. (31-08-18 Shift-I)

Ans : (a) According to the question total score of P, C, B, M = 400
scored marks in P, C, B, M by W student
= 70+90+50+85=295

Percentage marks $= \frac{295}{400} \times 100$

= 73.75%

scored marks in P, C, B, M by X students
= 55+80+95+60
= 290

percentage mark $= \frac{290}{400} \times 100$

= 72.5%

scored marks in P, C, B, M by Y students
= 60+20+90+40
= 210

Percentage mark $= \frac{210}{400} \times 100$

= 52.5%

scored marks in P, C, B, M by Z students
= 90+80+40+65
= 275

Percentage mark $= \frac{275}{400} \times 100$

= 68.75%

So it is clear that minimum percentage marks scored by Y

61. Based on the given table, the percentage salary increase per year during the period 2001-2006 was _____ (round off to the nearest integer).

Year	Items of Expenditure			
	Salary	**Food**	**Medicine**	**Tax**
2001	Rs.1,500	Rs. 200	Rs. 500	Rs. 100
2002	Rs.2,600	Rs. 300	Rs. 600	Rs. 200
2003	Rs.3,200	Rs. 150	Rs. 700	Rs. 150
2004	Rs.4,100	Rs. 250	Rs. 650	Rs. 125
2005	Rs.5,000	Rs. 200	Rs. 800	Rs. 150
2006	Rs.5,200	Rs. 100	Rs. 750	Rs. 175

(a) 248 (b) 247
(c) 246 (d) 245

RRB ALP & Tec. (30-08-18 Shift-I)

Ans : (b) Salary in year 2001 = Rs.1500
Salary in year 2006 = Rs. 5200
profit = 5200 – 1500 ⇒ Rs. 3700

percentage profit $\Rightarrow \frac{3700 \times 100}{1500}$

⇒ 246.67 or Almost 247 percentage

62. The ratio of salary : expenditure per year during period 2001 : 2006 is :

Year	Items of Expenditure			
	Salary	Food	Medicine	Tax
2001	Rs.1,500	Rs.200	Rs.500	Rs. 100
2002	Rs.2,600	Rs.300	Rs.600	Rs. 200
2003	Rs.3,200	Rs.150	Rs.700	Rs. 150
2004	Rs.4,100	Rs.250	Rs.650	Rs. 125
2005	Rs.5,000	Rs.200	Rs.800	Rs. 150
2006	Rs.5,200	Rs.100	Rs.750	Rs. 175

(a) 71/108 (b) 71/105
(c) 105/71 (d) 216/61

RRB ALP & Tec. (21-08-18 Shift-I)

Ans : (d) Total salary till 2001 to 2006 = 1500 + 2600 + 3200 + 4100 + 5000 + 5200 = 21600,
similar
total expenditure till 2001 to 2006 =
2001 ⇒ 200 + 500 + 100 = 800
2002 ⇒ 300 + 600 + 200 = 1100
2003 ⇒ 150 + 700 + 150 = 1000
2004 ⇒ 250 + 650 + 125 = 1025
2005 ⇒ 200 + 800 + 150 = 1150
2006 ⇒ 100 + 750 + 175 = 1025

$$\frac{\text{salary}}{\text{expenditure}} = \frac{21600}{6100} = 216 : 61$$

63. The table gives the details of the number of students in Class 10 section A and B who had taken mid-term and final exams.
What is the pass percentage in at least one of the two exams for sections A (approximately of rounded)?

Result	Sec A	Sec B
Total number of students who failed in both exams	28	23
Total number of students who failed in mid-term but passed in finals	14	12
Totals number of students who passed in mid-term but failed in finals	6	17
Total number of students who passed in both the exams	64	55

(a) 80 (b) 75
(c) 65 (d) 70

RRB ALP & Tec. (14-08-18 Shift-III)

Ans : (b) total number of students in section 'A' = (total pass + total failed) number of students = 28+14+6+64= 112
and total number of students passed in at least one examination = number of students passed in one examination + in both examination number of students passed = 14+6+64= 84
Hence the percentage of students passed in at least one examination in section 'A' = $\frac{84}{112} \times 100 = 75\ \%$

64.

City	Population	Literate	Illiterate	% of literates
A	200	150	50	–
B	–	200	100	66.6
C	150	50	100	–
D	120	–	90	25

Based on the given data, the total percentage of literates in the four cities together, round to one decimal, is _____.
(a) 55.9 (b) 55
(c) 55.7 (d) 55.8

RRB ALP & Tec. (10-08-18 Shift-III)

Ans : (d) Total population in city B =200+100 = 300
educated population in city D = 120–90 = 30
total population = 200+300+150+120= 770
total educated people = 150+200+50+30 = 430
total percentage of educated = $\frac{430 \times 100}{770} = 55.84$

Type - 3

65. The given graphics X shows the bike registration in the city in 6 months and total vehicles (in thousand) in the year 2017.
Note : The first column in the chart shows the bike (brown) and the second one shows the total vehicle (black).
What is the number of registered vehicles in addition to the bike in the March 2017 based on the given data.

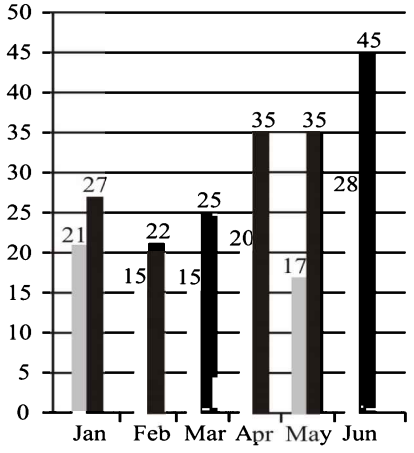

(a) 15000 (b) 10000
(c) 9000 (d) 11000

RRB RPF Constable – 19/01/2019 (Shift-I)

Ans : (b) ∵ Bike's number in March 2017 = 15000
total transport number in march 2017 = 25000
so registered transport number as well bike
= 25000–15000 = 10000

66. In the following graph, income from the laundry and dry cleaner change of four different shop is given, its values are given in the form of Rupees.

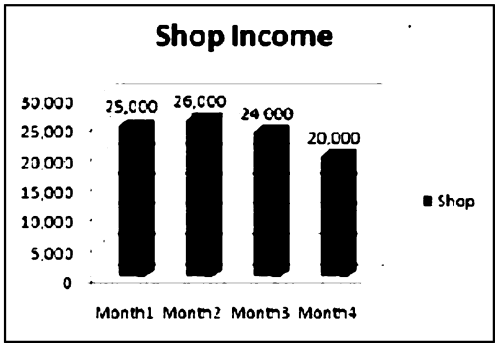

What is percentage difference between month 1 and month 4.

(a) less than 20% (b) more than 25%
(c) mote than 50% (d) less than 25%

RRB RPF SI – 12/01/2019 (Shift-III)

Ans : (a) difference of one month and four month
= 25000-20000 = 5000

difference % = $\frac{5000}{25000} \times 100 = 20\%$

So the income of month 4 is the income of 1 month less 20%

67. The figure below report the number of vehicle locomotives manufactured by the company 'ABC' in last 5 years.

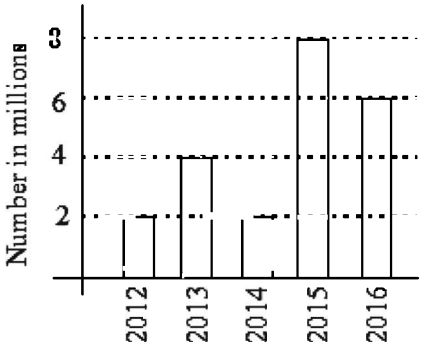

In which year the highest number of engines have been made?

(a) 2015 (b) 2014
(c) 2016 (d) 2012

RRB Group-D – 19/09/2018 (Shift-II)

Ans. (a) : According to given graph-

year	Manufacture engines (Millions)
2012	2 Millions
2013	4 Millions
2014	2 Millions
2015	8 Millions
2016	6 Millions

It is clear from the table that the highest production of engines has been done (8 Millions) in this year 2015.

68.

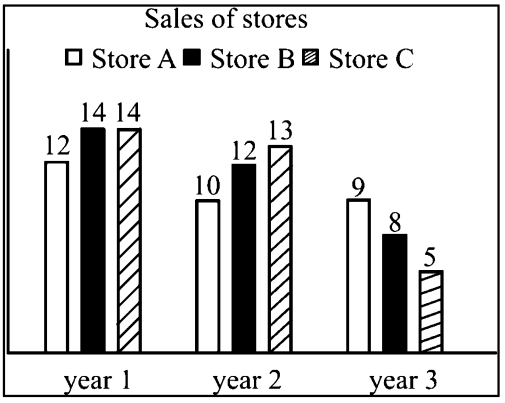

In which year sales of shop C is lower than other 2 years?

(a) year 3
(b) year 1
(c) Sales are same in 3 year
(d) year 2

RRB Group-D – 20/09/2018 (Shift-III)

Ans : (a) sales of C in year 1 = 14
sales of C in year 2 = 13
sales of C in year 3 = 5
Hence C's sales in year 3 were lower than other years:

69. According to the given chart, in which year sales of story B are more than 13 lakhs?

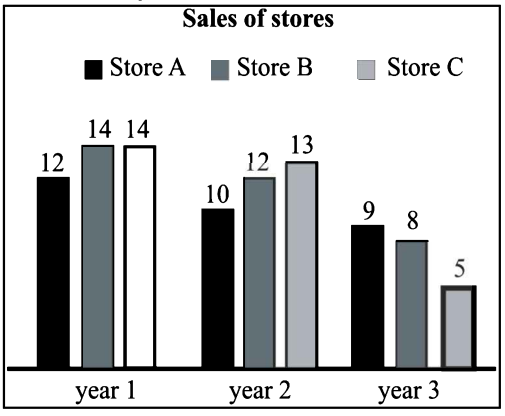

Note : Sales figures are in lakhs (Rs.)

(a) 2 year (b) 1 year and 2 year
(c) 1 year (d) 3 year

RRB Group-D – 23/09/2018 (Shift-I)

Ans : (c) After studying the given chart it is found that the sales of store B in year 1 = 14 Lakhs
the sales of store B in year 2 = 12 Lakhs
and sales of store B in year 3 = 8 Lakhs
So it is clear that in year 1 sales of store B are Rs. 13 Lakhs more.

70. A private gym can accommodate up to 25 people in a time slot. Its user has three different times slots and the following chart shows the average visitors a week. Is showing which day are they more can't accommodate members ?

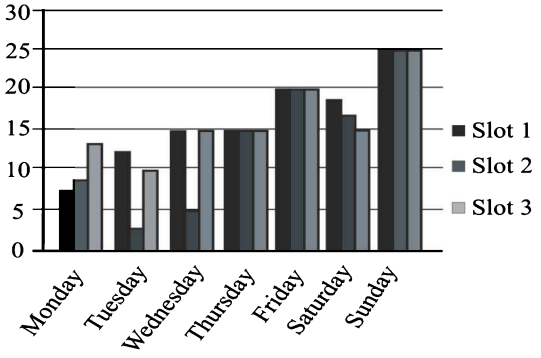

(a) Friday (b) Sunday
(c) Saturday (d) Thursday

RRB Group-D – 10/10/2018 (Shift-II)

Ans : (b) According to the given chart on sunday the number of people in slot 1, slot 2, slot 3 = 25
So on Sunday they could not accommodate more members.

71. The graph below shows information on the personal computer sales over the 11 years by company XYZ.

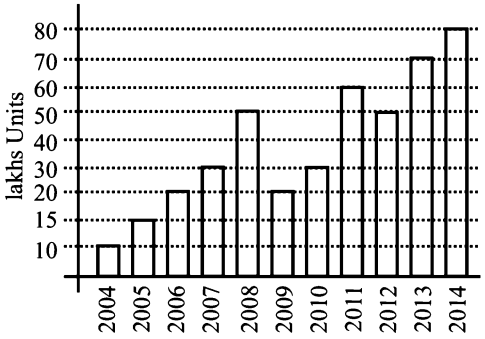

How many units of personal computer were sold by company XYZ in the year 2009. (in lakhs)

(a) 30 (b) 20
(c) 10 (d) 15

RRB Group-D – 10/10/2018 (Shift-II)

Ans : (b) The bar graph given above shows that the sales of private computers by the company XYZ in the year 2009 are 20 lakhs

72. The following bar graph gives information about the students who passed the institute ABC in the national level entrance examination in last 5 years.

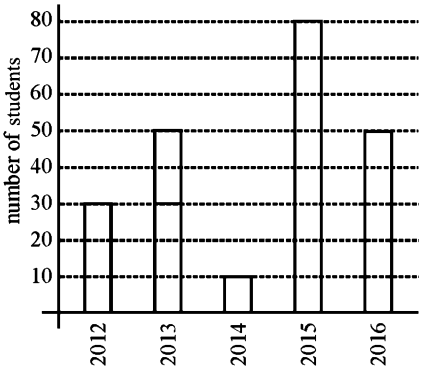

How many students passed from the institute in 2016?

(a) 40 (b) 50
(c) 30 (d) 60

RRB Group-D – 15/10/2018 (Shift-I)

Ans : (b) It is clear from the given bar graph that the number of students passed from institute ABC in the year 2016 = 50

73. The following bar graph displays personal computer information sent by the computer XYZ over the last 11 years.

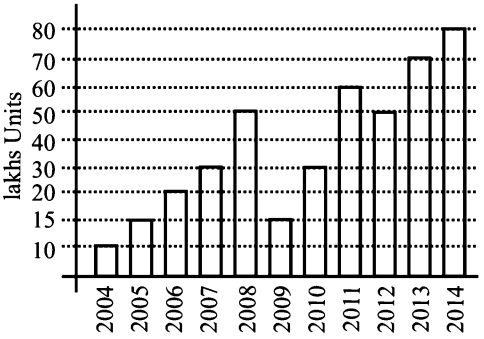

In which year was the lowest personal computer sold by the company XYZ.

(a) 2012 (b) 2014
(c) 2005 (d) 2004

RRB Group-D – 30/10/2018 (Shift-I)

Ans : (d) In the given graph, 2004 graph is at the bottom of all other years. So it is clear from this in 2004 personal computer sales were the lowest at 10 lakhs.

74. The following bar graph displays personal computer information sent by the computer sold by company XYZ.

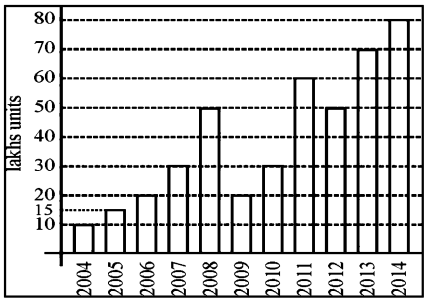

How many computers did XYZ sell in the year 2006?

(a) 10 (b) 15
(c) 20 (d) 30

RRB Group-D – 11/12/2018 (Shift-II)

Ans : (c) It is clear from the given bar graph that in the year 2006 the company XYZ sold 20 lakhs units of personal computers.

75. The following bar graph represent for 11 years, sent personal computer by company XYZ.

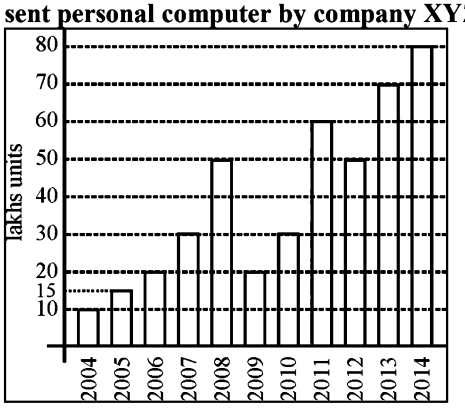

In which year were most computer sold by company XYZ. (in lakhs)

(a) 2014 (b) 2012
(c) 2013 (d) 2007

RRB Group-D – 22/10/2018 (Shift-III)

Ans : (a) Most personal computers (80 lakhs) have been sold by the company XYZ in the year 2014.

76. According to following chart, which retail salesperson provides product 2 in the price range Rs. 16 to 18?

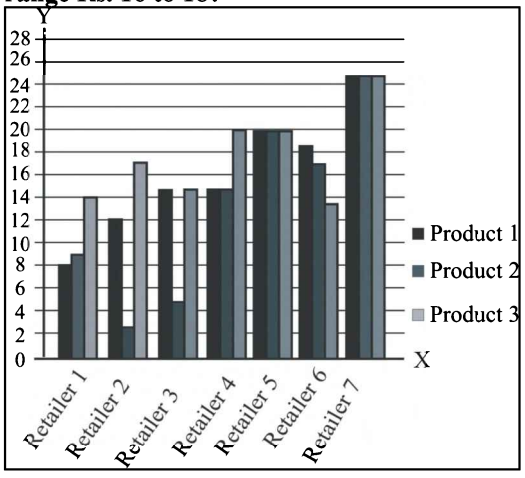

Note : Y axis indicates prize in rupees and X-axis represents the retailers.

(a) Retail Salesperson 1
(b) Retail Salesperson 6
(c) Retail Salesperson 7
(d) Retail Salesperson 2

RRB Group-D – 27/09/2018 (Shift-III)

Ans : (b) According to the chart, the price of Rs. 16 to Rs. 18 is available under the retailer 6

77. On the basis of graph given below which two farms show equal number of sheep?

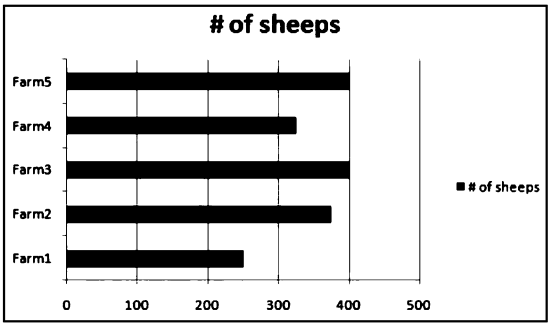

(a) Form 3 and Form 2
(b) Form 3 and Form 1
(c) Form 4 and Form 5
(d) Form 3 and Form 5

RRB Group-D – 10/10/2018 (Shift-I)

Ans : (d) The number of sheep in form 5 and form 3 in the given graph is same.

78. The following bar graph shows information on personal computers sold by the company 'XYZ' over the last 11 year.

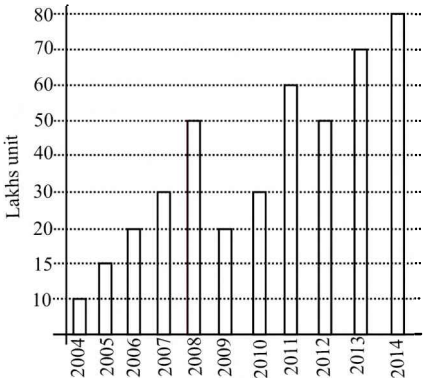

Which year was the maximum sales during the year 2004 to 2010?

(a) 2010 (b) 2006
(c) 2008 (d) 2004

RRB Group-D – 24/10/2018 (Shift-III)

Ans. (c) : During the year 2004-10, the maximum sales were made in 2008, which was 50 lakh sales.

Note (79-81): This time, pay attention to charts and answer the following question.

following table shows the details of TV sets selling over the years.

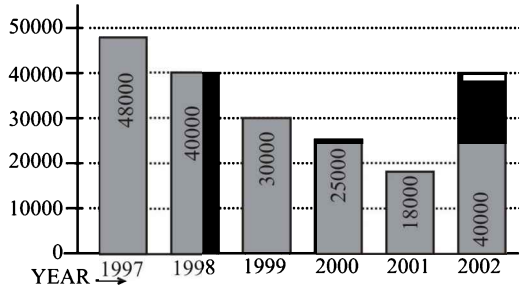

79. What is the percentage increment of TV sets selling in years 2001 to 2002 ?

(a) 115% (b) 128%

(c) 122% (d) 118%

RRB NTPC 30.04.2016 Shift : 2

Ans. (c) : % increase in sales of TV sets from 2001 to 2002

$$= \frac{40000-18000}{18000} \times 100$$

$$= \frac{22000 \times 100}{18000} = 122.22\%$$

$\therefore$ % increase $\approx 122\%$

80. The sum of sales of TV sets held in the year 1999 and year 2001 is equal to the sales of which year?

(a) 1997 (b) 1993

(c) 2000 (d) 2002

RRB NTPC 30.04.2016 Shift : 2

Ans. (a) : The sum of sales of TV sets in the year 1999 and year 2001 = 30000 + 18,000 = 48000

Hence 48000 sales is equal to the year 1997 sales

81. The rate of sals for TV sets has been minimum between which two years?

(a) 1998 and 1999

(b) 1999 and 2000

(c) 1997 and 1998

(d) 2001 and 2002

RRB NTPC 30.04.2016 Shift : 2

Ans. (b) :

The difference of sales of TV sets between the year 1998 and 1999

40000 – 30000 = 10,000

the difference of sales of TV sets between the year 1999 and 2000

30000 – 25000 = 5,000

the difference of sales of TV sets between the year 1997 and 1998

48000 – 400000 = 8,000

the difference of sales of TV sets between the year 2001 and 2002

40000 – 18000 = 22,000

Therefore between 1999 and 2000, the difference in sales of TV sets was minimum.

Note (82-84): Answer the following questions on the basis given information.

The bar graph below shows the percentage of distribution of the total production of various models of samsung TV company during the two years.

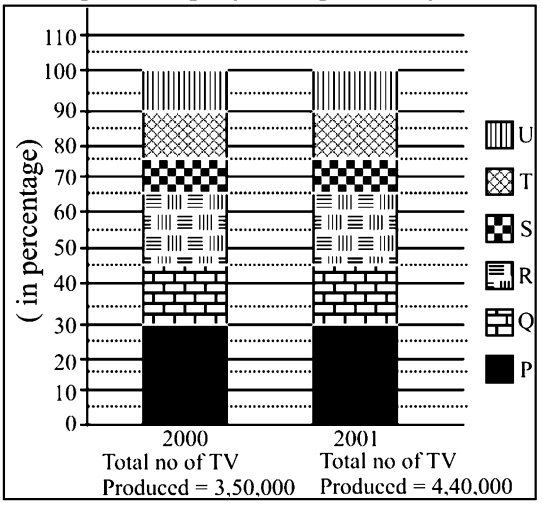

82. If percentage of production of Samsung TV in 2001 was same as the year 2000, what would be the number of production of p type Samsung TV in 2001?

(a) 1,40,000 (b) 1,32,000

(c) 1,17,000 (d) 1,05,000

RRB NTPC 30.04.2016 Shift : 1

Ans. (b) : Number of production P type Samsung TV in 2001

$$= 440000 \times \frac{30}{100}$$

$$= 132000$$

83. If the company had sold 85% of S type Samsung TV in each year, then how many glsry-type Samsung TV were not sold?

(a) 76,500 (b) 93,500

(c) 11,850 (d) 12,2500

RRB NTPC 30.04.2016 Shift : 1

Ans. (c) : Number of not sold S type Samsung TV

$$= 350000 \times \frac{10}{100} \times \frac{(100-85)}{100} + \frac{400000 \times (100-85)}{100} \times \frac{10}{100}$$

$$= 35000 \times \frac{15}{100} + \frac{40000 \times 15}{100}$$

$$= 5250 + 6600$$

$$= 11850$$

84. What is the total number of Samsung TV manufactured in P, Q and T models in the year 2000?

(a) 2,45,0000 (b) 2,27,5000
(c) 2,10,000 (d) 1,92,5000

RRB NTPC 30.04.2016 Shift : 1

Ans. (c) : In year 2000 total number of manufactured Samsung TV of P(30%), Q (15%) and T(15%) models

$$= 350000 \times \frac{60}{100} = 210000$$

Note (85-87): Answer the following questions based on the information.

The Coca-Cola company makes drinks in three different flavour mint (M), Apple (A) and Orange (O). The bar graph below shows the production of the three flavours for 6 years.

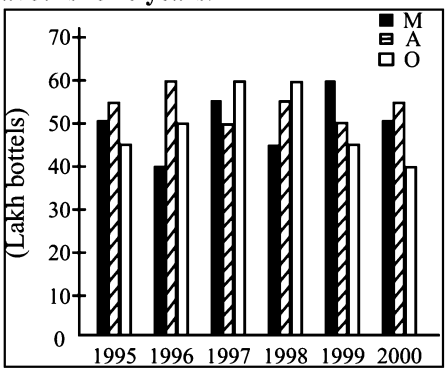

85. What is the difference between the average production of flavour mint in years 1995, 1996 and 1997 and the average production of flavoure apples in the years 1998, 1999 and 2000.

(a) 5,000 bottles (b) 80,000 bottles
(c) 2,40,000 bottles (d) 5,00,000 bottles

RRB NTPC 29.04.2016 Shift : 3

Ans. (d) : Average production of flavour mint in year 1995, 1996 and 1997 $= \frac{50+40+55}{3} = \frac{145}{3}$ lakh bottles

average production of flavour apple in year 1998, 1999 and 2000

$$= \frac{55+50+55}{3} = \frac{160}{3} \text{ lakh bottles}$$

$\therefore$ Intended difference $= \frac{160}{3} - \frac{145}{3} = 5$ lakh bottles

= 5,00,000 bottles

86. The annual average production of which flavor in the given period is maximum?

(a) Flavour mint
(b) Flavour apple
(c) Flavour orange
(d) Mint and apple

RRB NTPC 29.04.2016 Shift : 3

Ans. (b) : Total annual production average of flavor mint

$$= \frac{50+40+55+45+60+50}{6}$$

$$= \frac{300}{6} = 50 \text{ lakh bottles}$$

total annual production average of flavor apple

$$= \frac{55+60+50+55+50+55}{6}$$

$$= \frac{325}{6} = 54.166 \text{ lakh bottles}$$

total annual production average of flavor orange

$$= \frac{45+50+60+60+45+40}{6}$$

$$= \frac{300}{6} = 50 \text{ lakh bottles}$$

So total annual production average of flavor apple is maximum

87. How much did the production of Orange flavour reduce in the year 2000 compared to in the year 1998 ?

(a) 50% (b) 42%
(c) 33% (d) 25%

RRB NTPC 29.04.2016 Shift : 3

Ans. (c) : Intended loss $\% = \left(\frac{60-40}{60}\right) \times 100$

= 33.33% = 33%

Given the answer of the questions based on the following chart:

Following bar chart shows the polls of investment of mutual funds in India from all over the world.

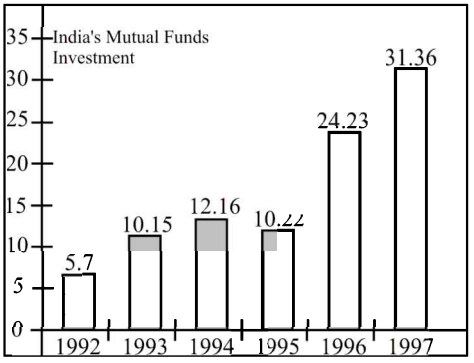

88. If India's mutual fund investment was proportionately the same as that of the whole of the world mutual fund investment in 1992 and if mutual fund investment from these countries was 2 million euros in 1992, what was the amount of mutual fund investment from these countries in 1997.

(a) 11 (b) 0.72
(c) 11.28 (d) 11.5

RRB NTPC 27.04.2016 Shift : 1

Ans. (a) : Mutual fund investment ratio in 1992 and 1997 $= \frac{5.7}{31.66} = \frac{570}{3136} = \frac{285}{1568}$

Let mutual fund investment is 285x and 1568x million Euro year in 1992 and 1997

$\therefore$ 285x = 2 million euros

$$x = \frac{2}{285}$$

$\therefore$ quantity of mutual fund investment from the country in 1997

$$= 1568 \times \frac{2}{285} = 11.003 \approx 11 \text{ million euros}$$

The following bar charts refers to the trend of mutual fund's investment in India from around the world.

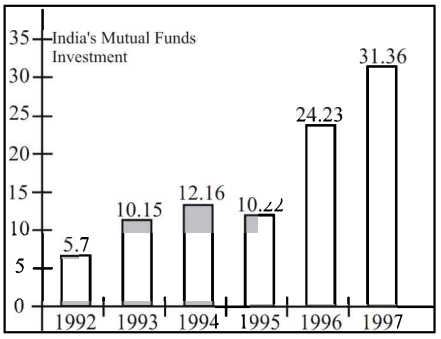

89. What was the net gap between 1996 and 1997 in investment of mutual fund in India.

(a) 7.29 (b) 7.13
(c) 8.13 (d) 7.77

RRB NTPC 27.04.2016 Shift : 1

Ans. (b) : Difference in mutual fund's investment in India of year 1996 to 1997 = 31.36 – 24.23 = 7.13

Direction (90-92): The following bar diagram is given below in the last few years, three companies Amber paper mill, Mack paper mill and Tanveer paper mill, respectively shown from A, M, T

If the data produced by paper (in lakh tones) Answer the following questions.

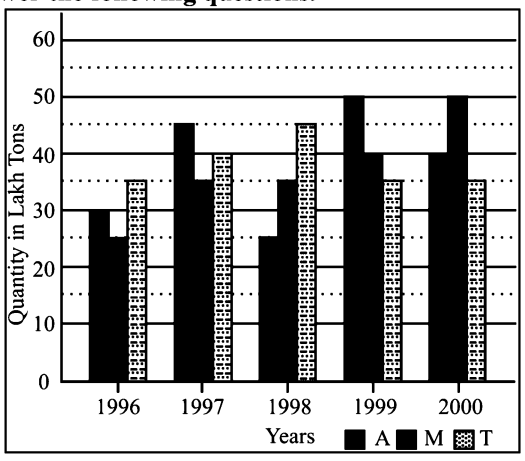

90. Which company produces average in five years maximum ?

(a) Amber paper mill
(b) Mack paper mill
(c) Tanveer paper mill
(d) Both Amber paper mill and Tanveer paper mill

RRB NTPC 07.04.2016 Shift : 1

Ans. (d) : Production average of Amber paper mill

$$(A) = \frac{30+45+25+50+40}{5} = \frac{190}{5} = 38$$

Production average of Mack paper mill

$$= \frac{25+35+35+40+50}{5}$$

$$M = \frac{185}{5} = 37$$

Production average of Tanveer paper mill

$$= \frac{35+40+45+35+35}{5}$$

$$T = \frac{190}{5} = 38$$

So production average will be equal of Amber paper mill and Tanveer paper mill

91. In which year the production of Tanveer paper mill was maximum from Mack paper mill.

(a) 1996 (b) 1997
(c) 1998 (d) 1999

RRB NTPC 07.04.2016 Shift : 1

Ans. (a) : Tanveer's production in 1996 = 35

Mack is production in 1996 = 25

$$\text{Percentage} = \frac{35 \times 100}{25} = 140\%$$

Tanveer's production in 1997 = 40

Mack's production in 1997 = 35

$$\text{Percentage} = \frac{40 \times 100}{35} = 114.2\%$$

Tanveer's production in 1998 = 45

Mack's production in 1998 = 35

$$\text{Percentage} = \frac{45 \times 100}{35} = \frac{9 \times 100}{7} = 1.28 \times 100 = 128\%$$

So, in 1996 Tanveer's production percentage is maximum than Mack's production percentage

92. What is the ratio of average production of Amber paper mill and average production of a Mack paper mill from the time 1998-2000?

(a) 1 : 1 (b) 15 : 17
(c) 23 : 25 (d) 27 : 29

RRB NTPC 07.04.2016 Shift : 1

Ans. (c) : Production average of Amber paper mill

$$= \frac{25+50+40}{3}$$

$$= \frac{115}{3}$$

Production average of mack's paper mill

$$= \frac{35+40+50}{3} = \frac{125}{3}$$

intended ratio $= \frac{115}{3} : \frac{125}{3} = 23:25$

Note (93-95):

The bar chart represents percentage marks scored by four students U, V, W and X in History and Geography. Consider the bar chart and answer the questions based on it.

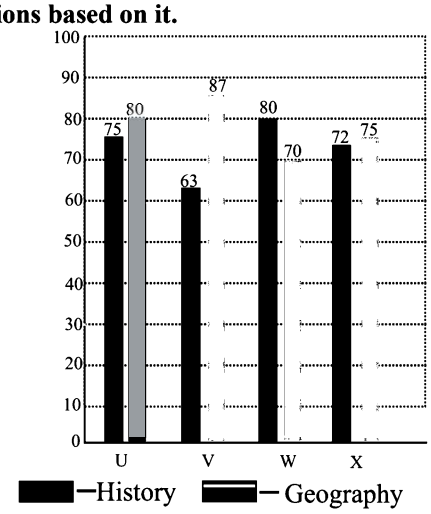

93. What is the percentage difference in the total marks obtained in Geography and History?

(a) 7.58% (b) 7%

(c) 4.13% (d) 5.5%

RRB NTPC 03.04.2016 Shift : 2

Ans. (d) : Scored total marks in Geography

= 80+87+70+75 =312

Scored total marks in history

=75+63+80+72= 290

Intended difference %

$$= \left(\frac{312}{4}\right)\% - \left(\frac{290}{4}\right)\% = \frac{22}{4}\% = 5.5\%$$

94. What is the average percentage marks obtained in History by all students?

(a) 78% (b) 75%

(c) 72.5% (d) 70%

RRB NTPC 03.04.2016 Shift : 2

Ans. (c) : Scored percentage marks in History by all students

$$= \left(\frac{75+63+80+72}{4}\right) = \frac{290}{4}\% = 72.5\%$$

95. Who scored the highest percentage in both the subjects combined?

(a) Both V and W (b) V

(c) W (d) U

RRB NTPC 03.04.2016 Shift : 2

Ans. (d) :

Got percentage marks in History and Geography of U

$$= \frac{(75+80)}{2}\%$$

$$= \frac{155}{2}\% = 77.5\%$$

got percentage marks in History and geography of V

$$= \left(\frac{63+87}{2}\right)\%$$

$$= \frac{150}{2}\% = 75\%$$

got percentage marks in History and Geography of W

$$= \left(\frac{80+70}{2}\right)\%$$

$= 75\%$

got percentage marks in History and Geography of X

$$= \left(\frac{72+75}{2}\right)\%$$

$= 73.5\%$

So percentage marks of U is maximum in both subjects.

96. The given chart shows men's and women's average daily earning in Company X.

Multiple Bar Chart showing men's and women's Average Daily Earnings (in Rs.)

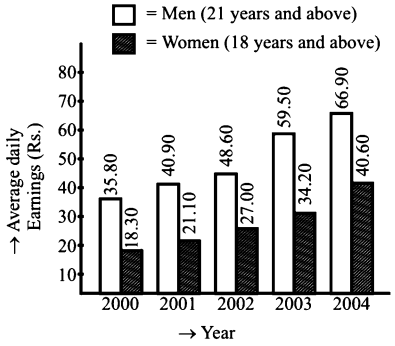

Year -

Average daily earnings -

Men (21 years and above) -

Women (18 years and above)-

Based on the depicted data, in which year was the percentage increase of the average daily earning of men maximum over the preceding year ?

(a) 2003 (b) 2001

(c) 2002 (d) 2004

RRB ALP & Tec. (30-08-18 Shift-I)

Ans : (a)

Average daily earning in year 2000 = ₹ 35.80

increase in average daily earning in year 2001 =40.90 – 35.80 = ₹ 5.10

increase in 2002 = 48.60 – 40.90 = ₹ 7.7
increase in 2003 = 59.50 – 48.60 = ₹ 10.9 (maximum)
increase in 2004 = 66.90 – 59.50 = ₹ 7.4
So it is clear that average daily earning of males was increase maximum in year 2003

increase percentage $= \frac{10.9 \times 100}{48.60} = 22.43\%$

97. If the total number of bikes sold in 2009 was 50000, then by what number was the sales of white bikes less than that of yellow and red bikes put together?

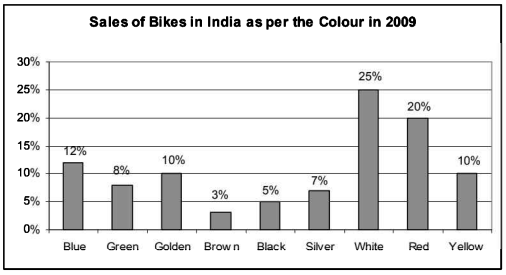

Sales of bikes by color in Indian in 2009, blue, green, golden, brown, black, silver, white red and yellow.

(a) 5,000 (b) 2,500
(c) 10,000 (d) 3,000

RRB ALP & Tec. (20-08-18 Shift-I)

Ans : (b) Number of yellow colour bikes

$= 50000 \times \frac{10}{100} = 5000$

number of red colour bikes $= 50000 \times \frac{20}{100} = 10000$

sales of yellow and red colour bikes = 10000 + 5000
= 15000

number of white colour (sale) bikes $= 50000 \times \frac{25}{100}$
= 12500

intended loss in sales.
= 15000 – 12500 = 2500

98. The percentage increase in the population is highest as compared to that of the previous year in the year :

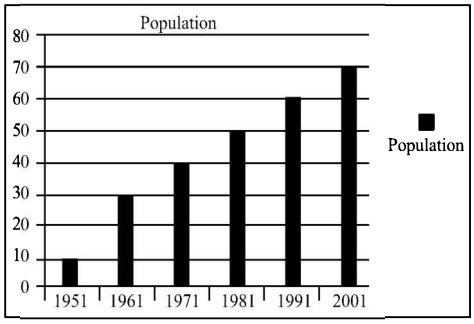

(a) 2001 (b) 1981
(c) 1971 (d) 1961

RRB ALP & Tec. (17-08-18 Shift-II)

Ans : (d) Population increase in year 2001

$= \frac{70-60}{60} \times 100$

$= \frac{10}{60} \times 100$

$= \frac{100}{6} = 16.66\%$

Population increase in year 1981 $= \frac{50-40}{40} \times 100$

$= \frac{10}{40} \times 100$

$= \frac{100}{4} = 25\%$

Population increase in year 1961 $= \frac{30-10}{10} \times 100$

$= \frac{20}{10} \times 100$

$= 200\%$

Population increase in year 1971 $= \frac{40-30}{30} \times 100$

$= \frac{10}{30} \times 100 = \frac{100}{3}$

$= 33.33\%$

So percentage increase is maximum compare to previous year in year 1961

99. Study the following graph and answer the question that follows.

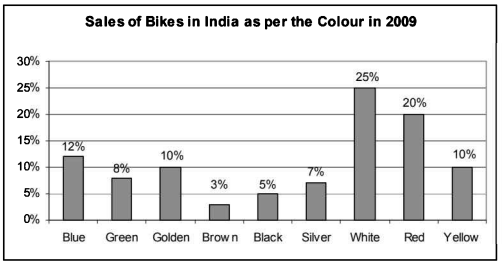

If the total number of bikes sold in 2009 was 10000 how many more yellow bikes were sold than green ones?

(a) 200 (b) 2000
(c) 1000 (d) 800

RRB ALP & Tec. (10-08-18 Shift-II)

Ans : (a) Total sales = 10000

sales of green colour's bikes $= 10000 \times \frac{8}{100}$
= 800

sales of yellow colour's bikes $= 10000 \times \frac{10}{100}$
= 1000

intended difference = 1000 – 800 = 200

Type - 4

100. Based on the given graph, what percentage change in CO_2 concentration from year 2005 to 2015.

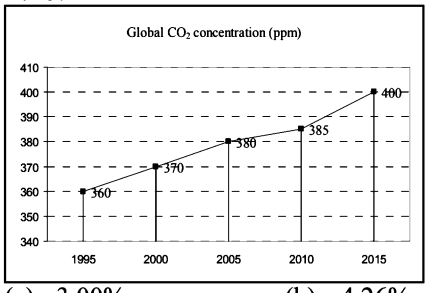

(a) 3.00% (b) 4.26%
(c) 5.00% (d) 5.26%

RRB RPF Constable – 24/01/2019 (Shift-III)

Ans. (d) : CO_2 concentration change from year 2005 to 2015 = 400 – 380 = 20
percentage increase in CO_2 concentration

$$= \frac{20}{380} \times 100 = 5.26\%$$

101. The shop of a sports game contains sales data in the following graphs. In which month has the least sales?

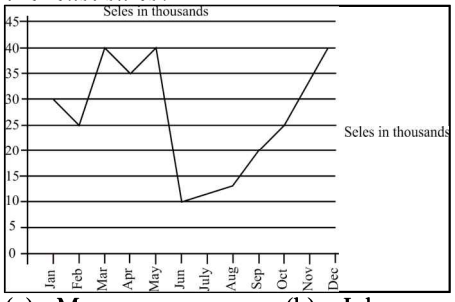

(a) May (b) July
(c) June (d) August

RRB Group-D – 30/10/2018 (Shift-I)

Ans : (c) It is clear from the data given in the graph that the sales are lowest in June (10000)

102. A library has 10 different sections and the librarians verifies books for 20 days. Which section has the lowest number of books?

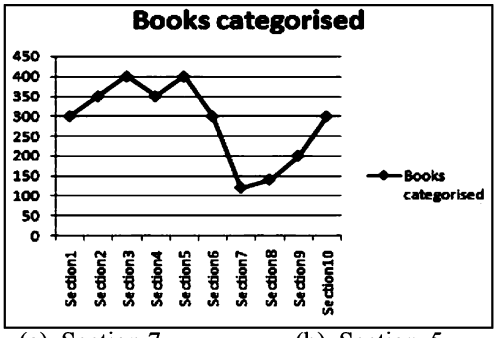

(a) Section 7 (b) Section 5
(c) Section 8 (d) Section 9

RRB Group-D – 18/09/2018 (Shift-II)

Ans. (a) : Given to the graph it is clear that minimum books (125) is in section 7

103. According to the following chart in which month the production of screw was less than 250.

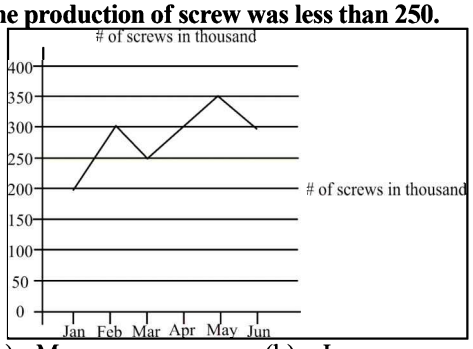

(a) May (b) June
(c) February (d) January

RRB Paramedical Exam – 21/07/2018 (Shift-II)

Ans : (d) It is clear from the chart 200 screws manufactured in January month which is less than 250 screws in March.

104. Based on the given graph, what percentage of a change in humidity of CO_2 from year 1995 to 2015 year ?

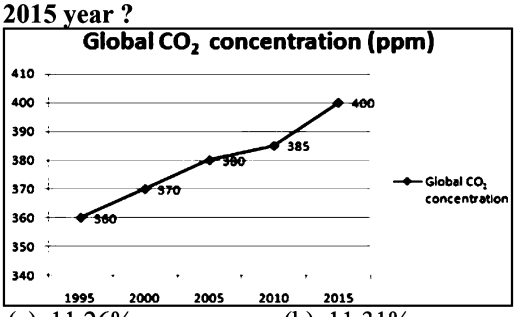

(a) 11.26% (b) 11.31%
(c) 11.00% (d) 11.11%

RRB Group-D – 26/09/2018 (Shift-II)

Ans. (d) : from the graph
in concentration percentage change of CO_2

$$= \frac{400-360}{360} \times 100 = \frac{40}{360} \times 100 = 11.11\%$$

So CO_2 in concentration is change 11.11%

105. Based on the graph below, which section contains more than 360 books?

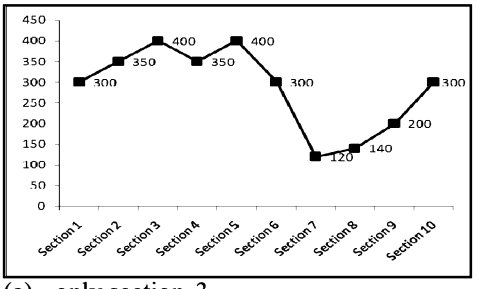

(a) only section 3
(b) section 4 and section 5
(c) section 3 and section 5
(d) section 5 and section 6

RRB Group-D – 11/10/2018 (Shift-III)

Ans : (c) According to the graph in section 3 and section 5 is 400 and 400 books respectively.
Which are maximum number of 360 books in the question.